Quiz

- 已知图 G 的顶点集合 $V=\{V_0, V_1, V_2, V_3, V_4\}$，邻接矩阵如下图所示
  - (1) 画出图 G
  - (2) 以 V_0 起始作为顶点，运行 Prim 算法，画出每一步的构建过程
  - (3) 运行 Kruskal 算法，画出每一步的构建过程

$$\begin{bmatrix} 0 & 7 & \infty & 4 & 2 \\ 7 & 0 & 9 & 1 & 5 \\ \infty & 9 & 0 & 3 & \infty \\ 4 & 1 & 3 & 0 & 10 \\ 2 & 5 & \infty & 10 & 0 \end{bmatrix}$$

Prim 算法过程

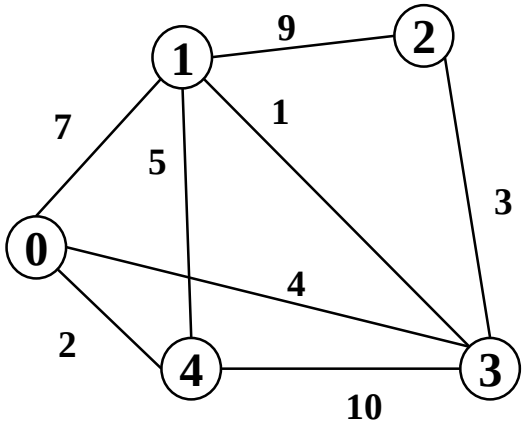

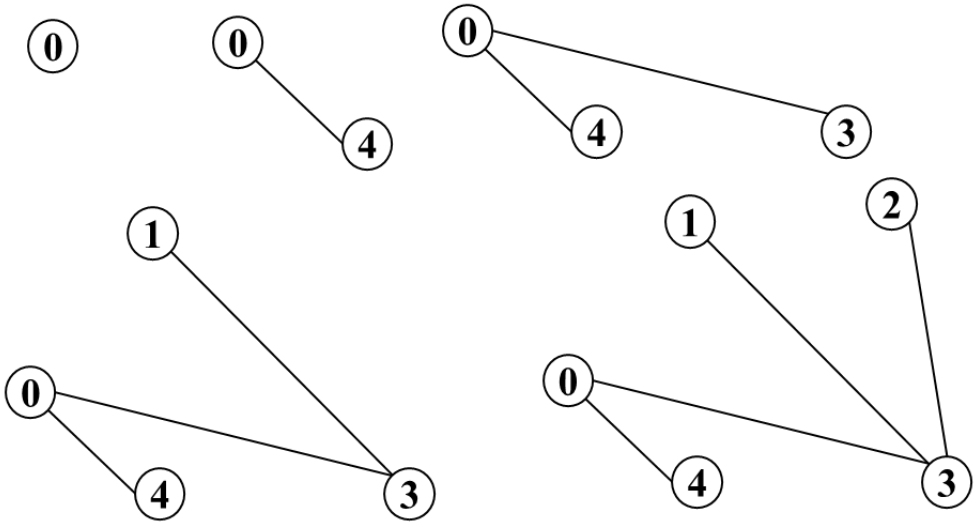

北京大学

Kruskal 算法过程

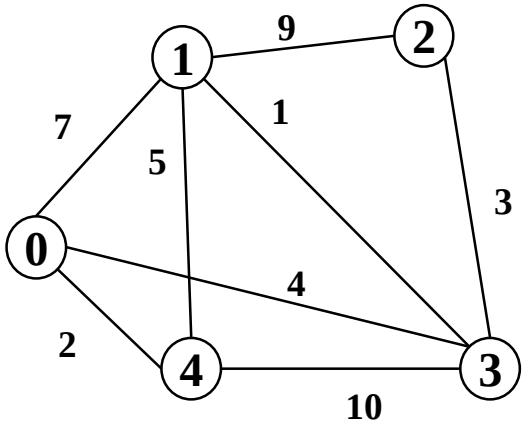

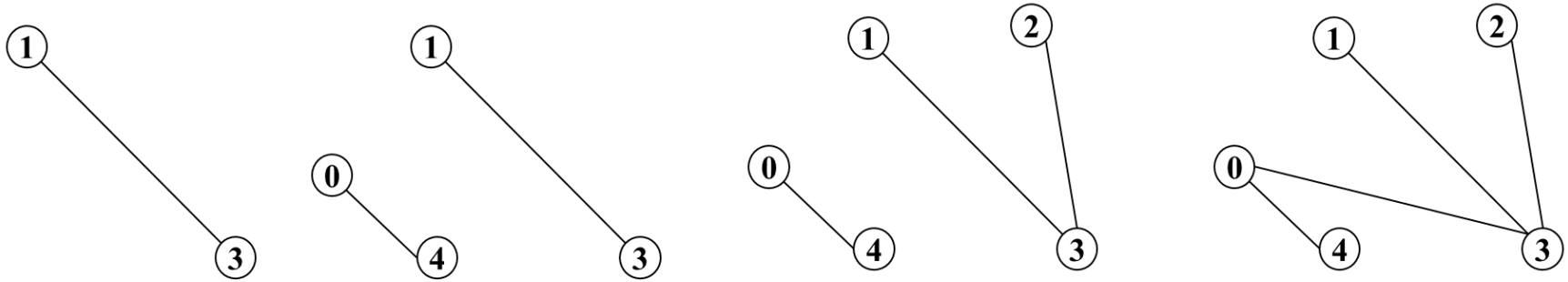

北京大學